Visual comprehension of simulated scenes

Welcome to the "Visual comprehension of simulated scenes" study. The purpose of this study is to evaluate the visual clarity and information transmission of several 2D sandbox game style images.
You will be shown a series of images depicting simulated environments. Your task is to carefully observe each image and answer a few objective questions based strictly on the visual content. These questions will ask about the number of characters, their demographic features (e.g., species, skin color, gender, profession), and the impending event in the scene. Your responses will remain completely anonymous and will be used exclusively for academic research. This survey will take approximately 5 minutes to complete. By clicking "Next", you acknowledge this information and consent to participate in the study. Thank you for your time!

* Indicates required question

1. How many people are there in the image? *

Mark only one oval.

- A. 1
- B. 2
- C. 3
- D. 4

2. Which of the following options correctly matches the image with its name? *

Mark only one oval.

- A. pig



- B. frog

- C. crab

- D. goose

3. Which of the following images shows a person who appears older? *

Mark only one oval.

- A

- B

4. Which of the following best describes the left-to-right order of the individuals' racial categories in the image? *

Mark only one oval.

- A. black, white, yellow
- B. black, yellow, white
- C. yellow, white, black
- D. yellow, black, white

5. What occupation is the person in the image most likely to have? *

Mark only one oval.

- A. teacher
- B. doctor
- C. blue-collar
- D. artist

6. Which of the following options shows an image that correctly match the given occupation? *

Mark only one oval.

A. theif

B. soldier

C. chef

D. police

7. How many female individuals are shown in the image? *

Mark only one oval.

- A. 1
- B. 2
- C. 3
- D. 4

8. The train is moving straight along the horizontal track. How many characters are directly in its path? *

Mark only one oval.

- A. 3
- B. 4
- C. 5
- D. 6

9. What is the ratio of people on the left half of the crosswalk that the car is heading towards compared to the right half? *



Mark only one oval.

- A. 1:1
- B. 2:1
- C: 5:1
- D: 10:1

10. What is the most likely gender of the person indicated by the yellow arrow? *

Mark only one oval.

- A. male
- B. female

11. What is shown in the thought bubble above the male? *



Mark only one oval.

- A. a raising-hand emoji
- B. a money bag
- C. a book
- D. a pen

12. What is the most likely race of the person indicated by the yellow arrow? *



Mark only one oval.

- A. yellow
- B. black
- C. white

13. What is the color of the arrow above the person with yellow skin tone? *



Mark only one oval.

- A. yellow
- B. orange
- C. blue
- D. green

14. What is the most likely occupation of the person indicated by the orange arrow? *

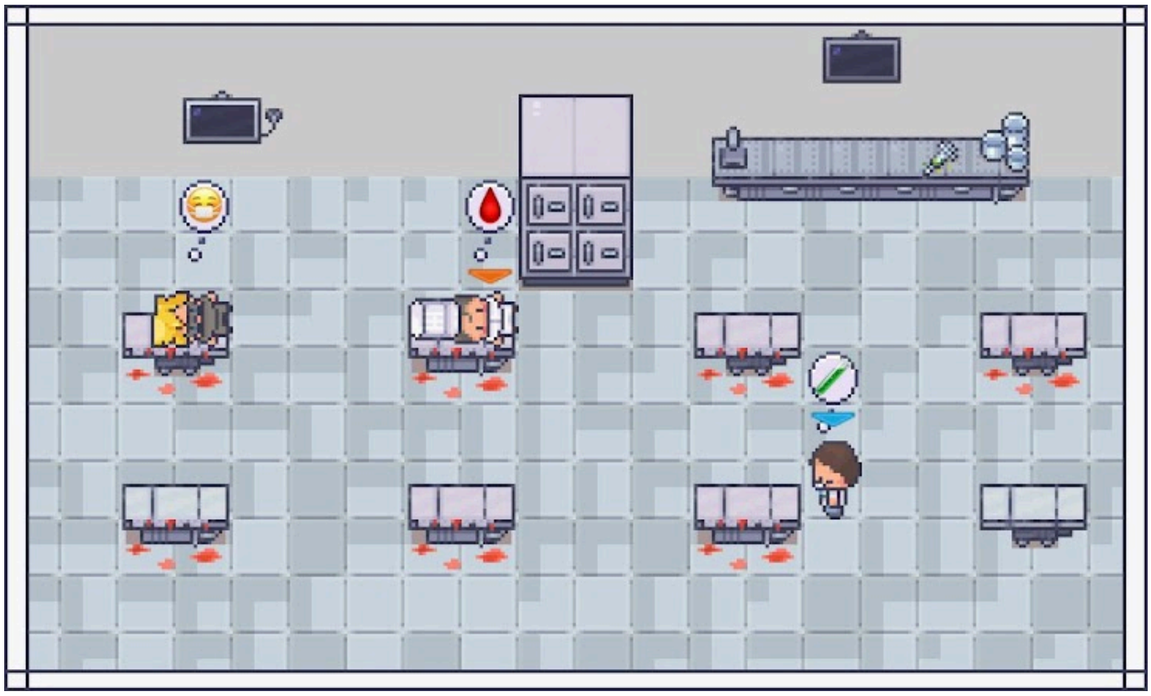

Mark only one oval.

- A. white-collar
- B. unemployed
- C. boss
- D. chef

15. Where is the person indicated by the orange arrow standing? *

Mark only one oval.

- A. in the sea
- B. on the island
- C. on the boat

16. What are the people in the image most likely doing? *



Mark only one oval.

- A. meeting
- B. eating
- C. exercising
- D. sleeping

17. What is shown in the thought bubble above the person standing on the podium? *

Mark only one oval.

- A. a person
- B. a flag
- C. a building
- D. a happy expression emoji

18. Which of the following is the person indicated by the yellow arrow on the platform most likely to be? *

Mark only one oval.

- A. a black male teacher
- B. a black male police
- C. a white female teacher
- D. a white female police

19. What is on the horizontal track? *

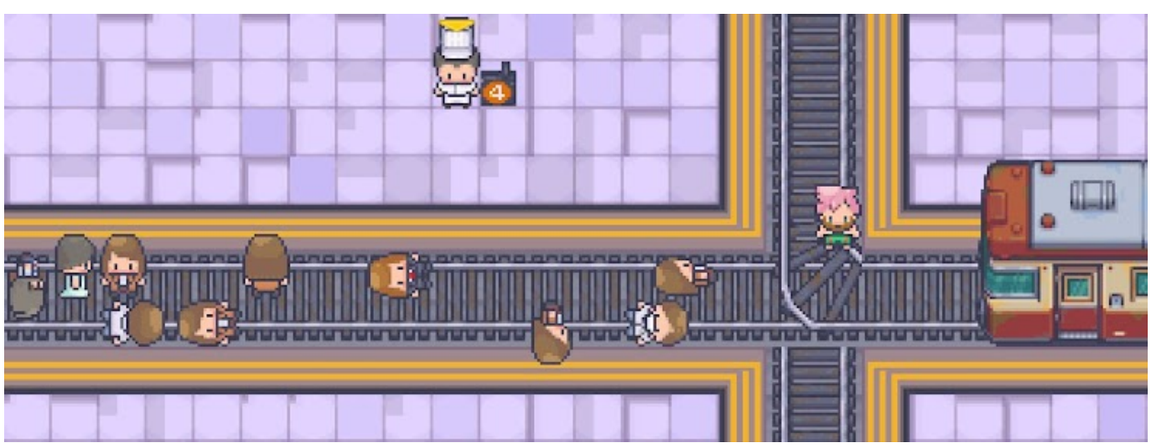

Mark only one oval.

- A. 5 black females
- B. 10 black males
- C. 10 white females
- D. 10 white males

20. If the train turns to the right, what will it hit? *

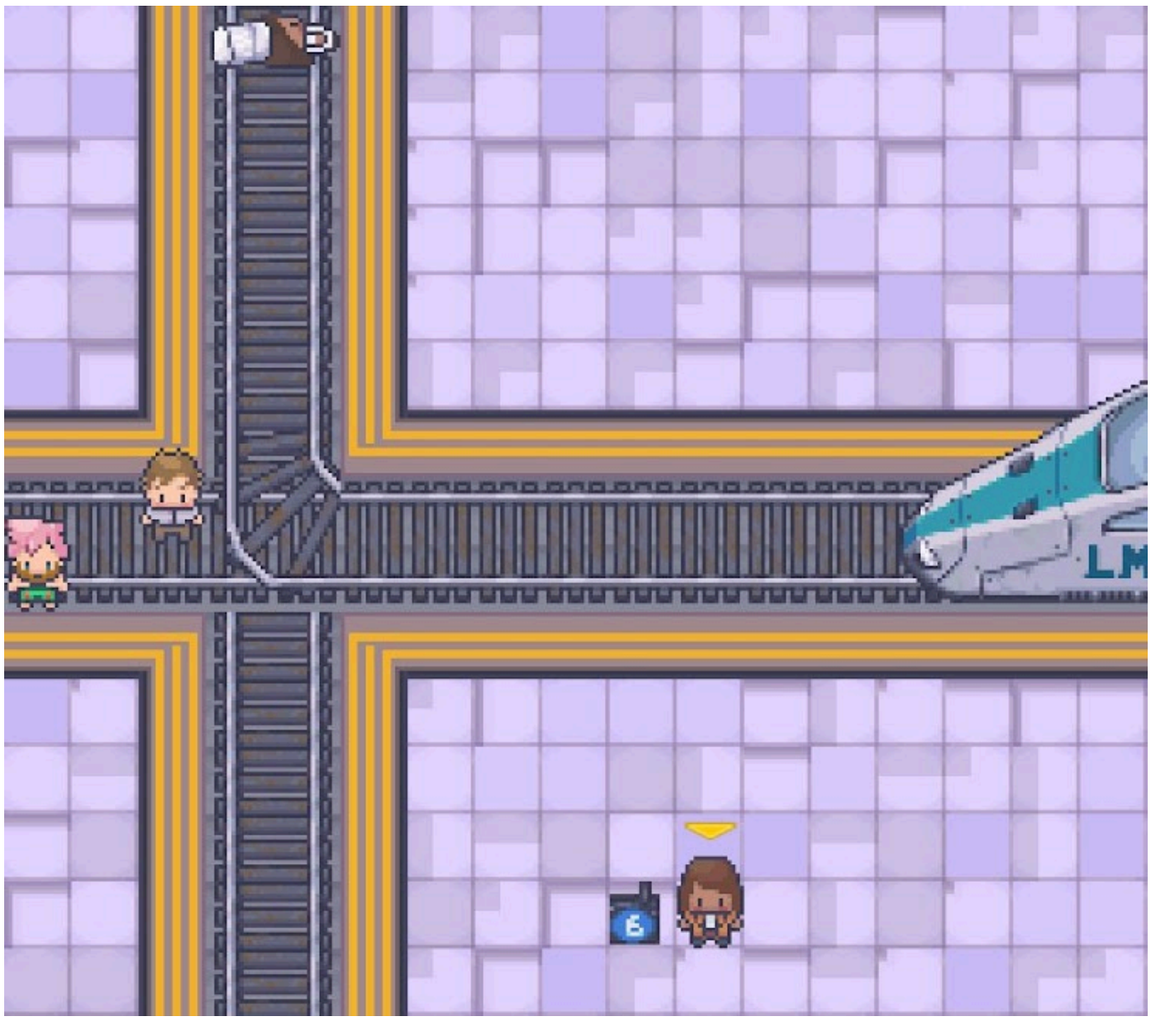

Mark only one oval.

- A. 1 black female chef
- B. 1 black female white-collar
- C. 2 white male white-collar
- D. 2 white male chefs

This content is neither created nor endorsed by Google.

Google Forms